2-1 根据立体图画点的投影图(1:1)量取

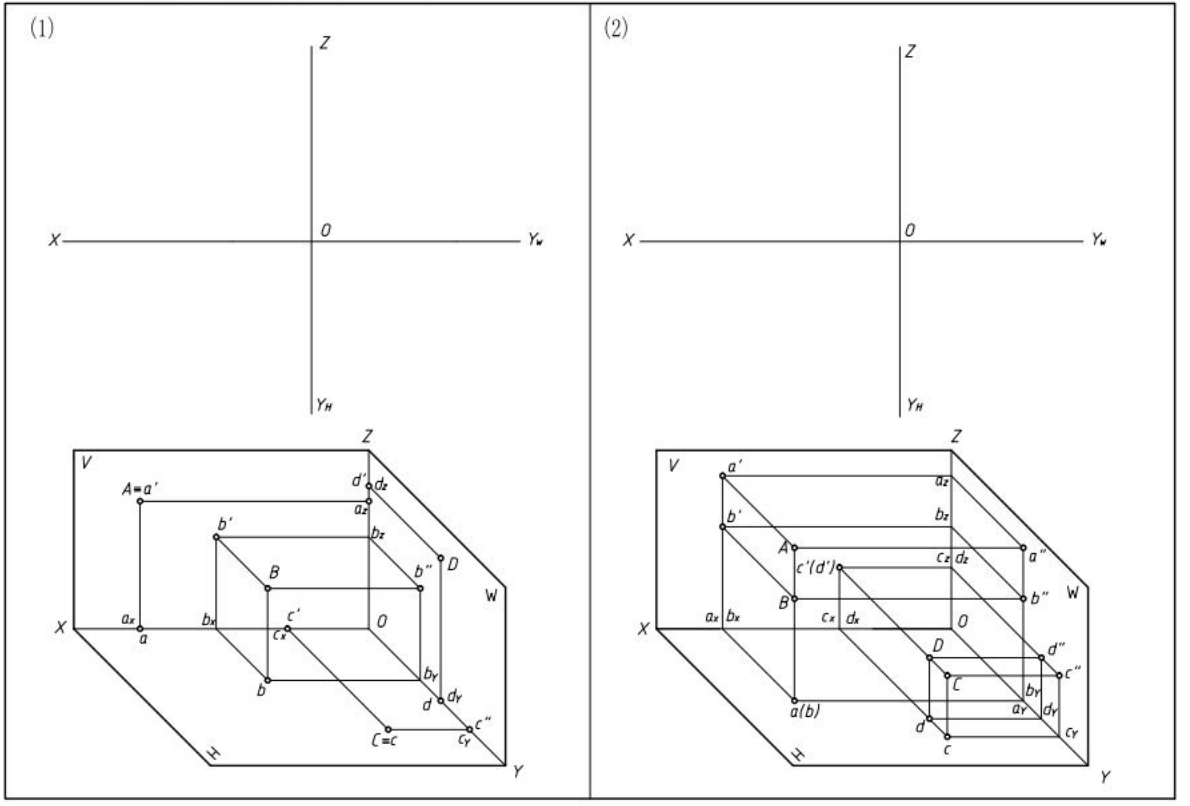

2-2 根据立体图画点的投影图(1:1)量取

(1) A（15,10,25）,B（25,15,20）,(15,15,20)

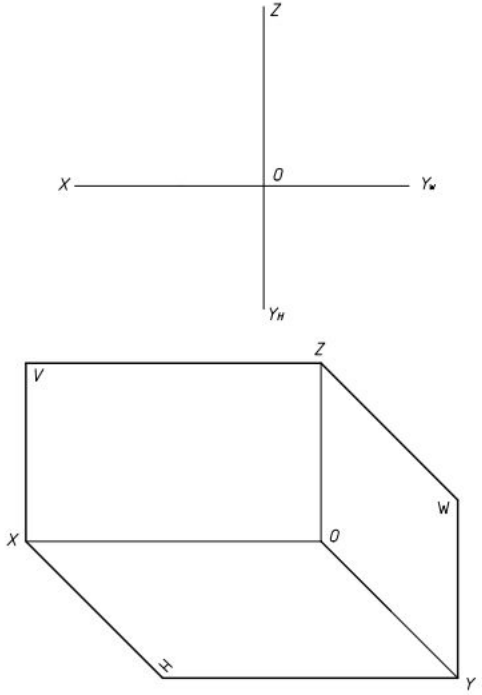

(2) M（10,15,20）,N(20,0,25),P(10,20,20)

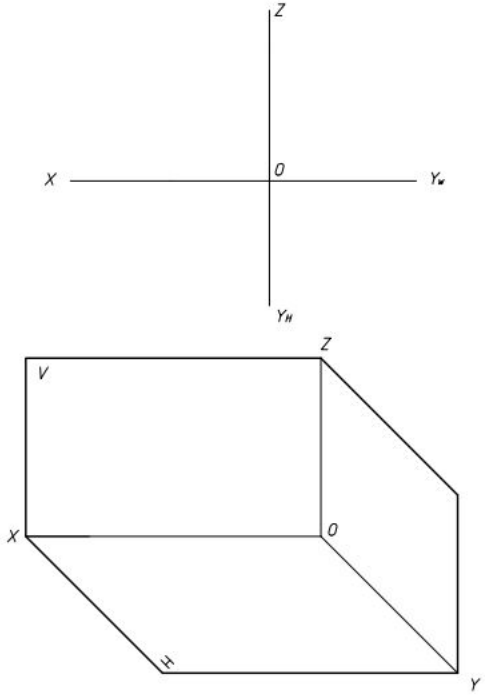

2-3　根据点的两面投影作第三面投影，并比较各点的相对位置

(1)

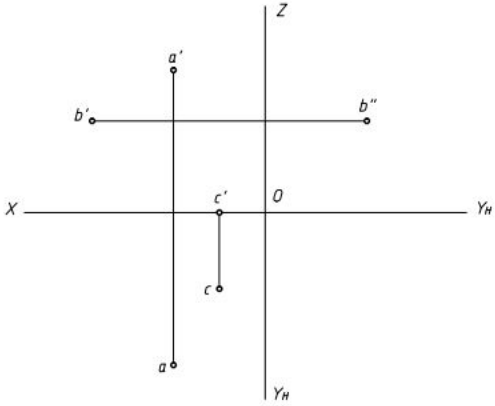

B、C和A比较	B	C
在A点的上下		
在A点的前后		
在A点的左右		

(2)

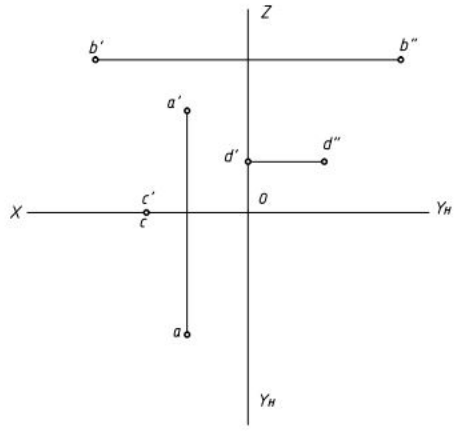

B、C、D和A比较	B	C	D
在A点的上下			
在A点的前后			
在A点的左右			

2-4　补画出直线的第三投影，并判断是什么位置直线

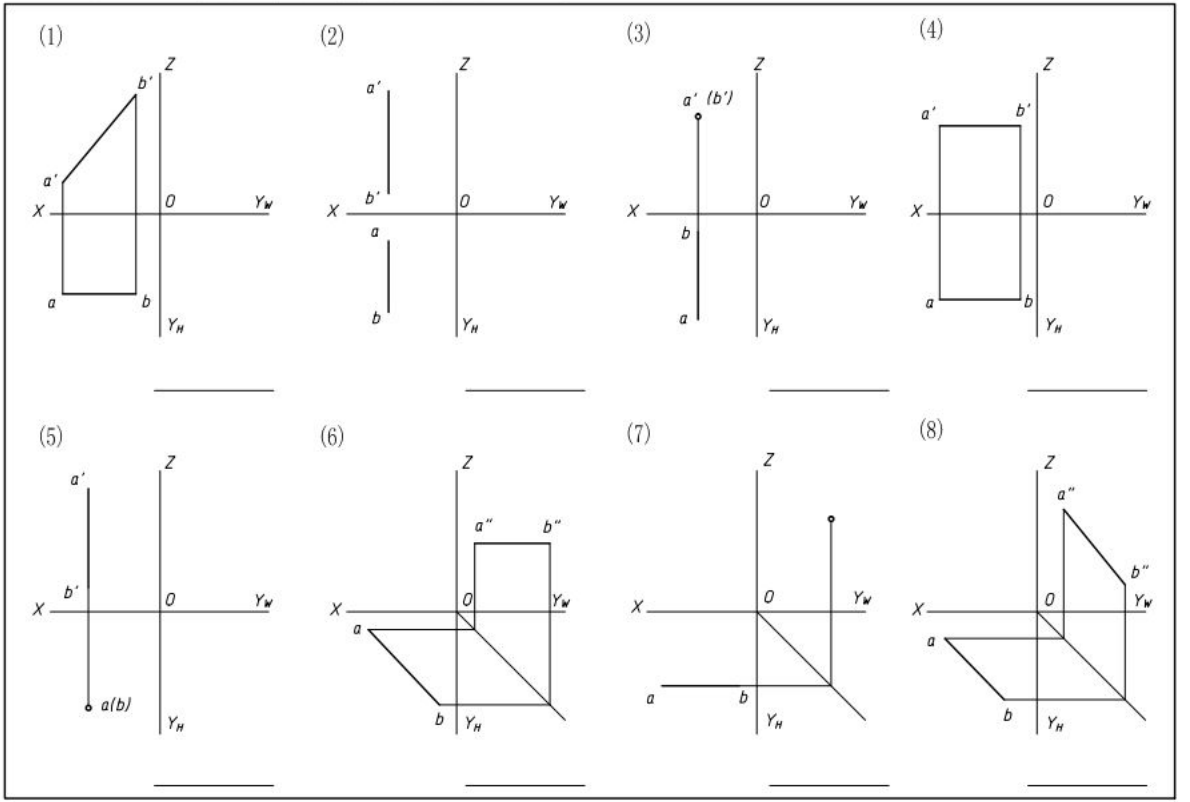

2-5　补画出三棱锥的侧面投影，并判断各棱线是什么位置直线

(1)

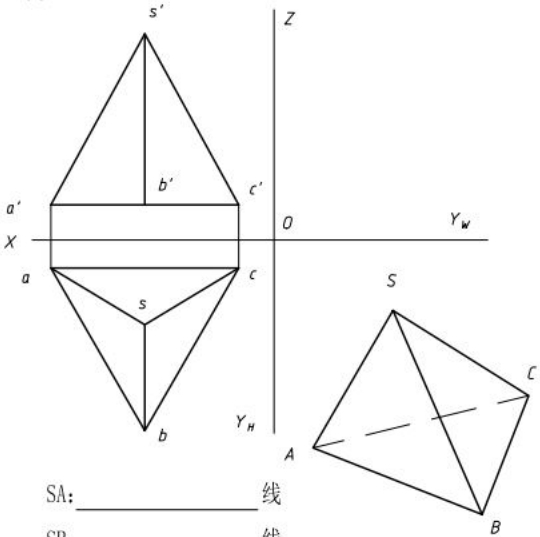

SA: _____ 线

SB: _____ 线

SC: _____ 线

AB: _____ 线

AC: _____ 线

BC: _____ 线

(2)

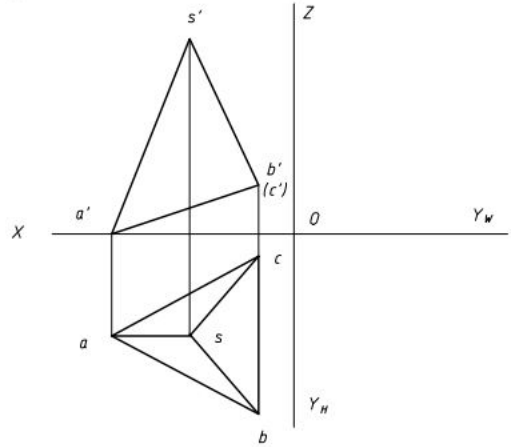

SA: _____ 线

SB: _____ 线

SC: _____ 线

AB: _____ 线

AC: _____ 线

BC: _____ 线

2-6 根据所给的条件作出直线的三面投影

(1) 已知线段端点A（30，10，10），点B（10，20，20）

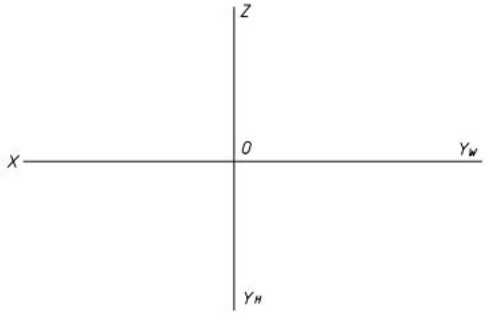

(2) 已知点A（30，15，15）和线段AB的实长20，α=30°的正平线。

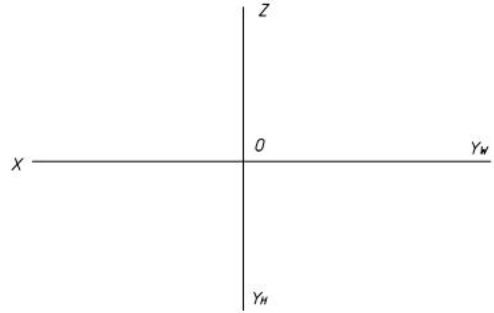

(3) 过点A（已知其水平投影），作一侧垂线AB，长为30与V、H面等距。

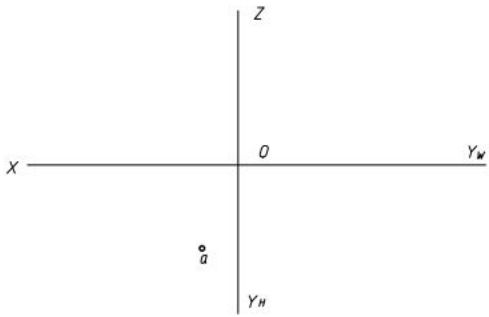

(4) 作侧平线AB，长为20，与V、H面倾角相等。

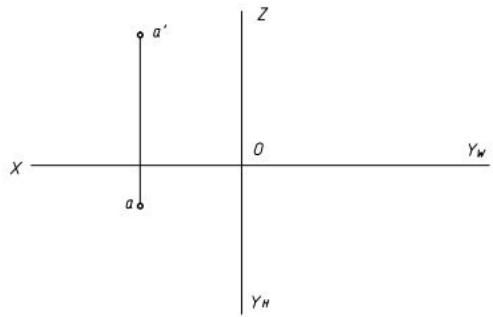

2-7　判断点C是否属于直线AB，在括号内填写“是”或“否”。

(1)

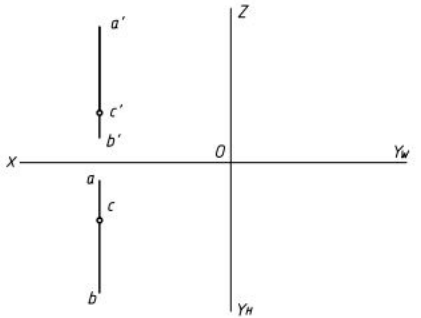

(　)

(2)

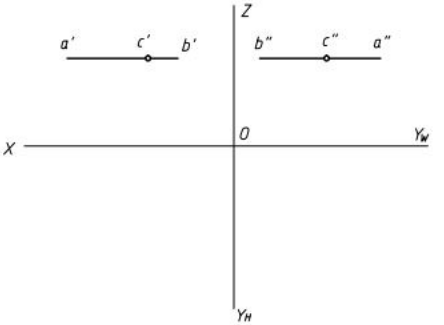

(　)

(3)

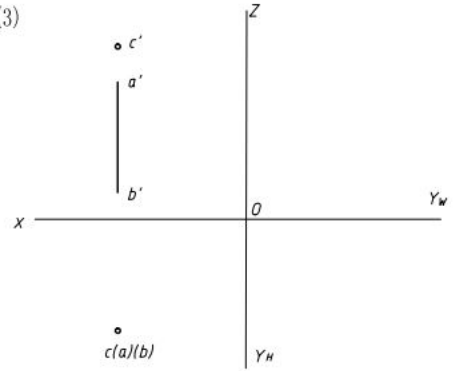

(　)

(4)

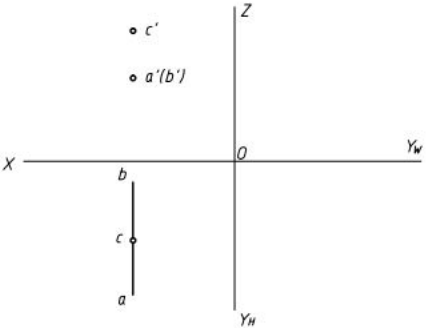

(　)

2-8 根据条件，在线段上求点

(1) 确定点C，使AC:CB=2:3。

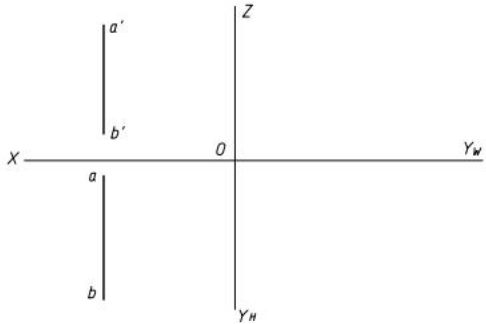

(2) 确定点K，使点K到V与H面距离之比为2:3。

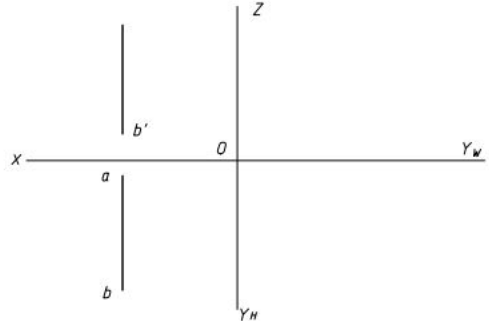

(3) 确定点C，使其与V、H面等距。

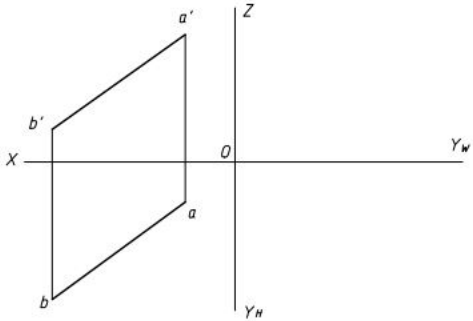

(4) 确定点C，使其距W面为20。

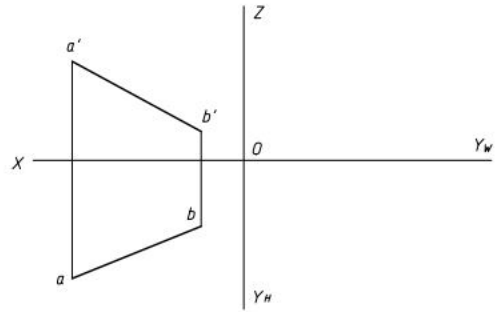

2-12　判别给出的平面是何种位置平面。

(1)

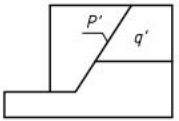

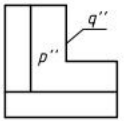

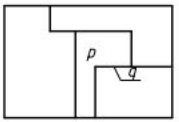

P面 _____

Q面 _____

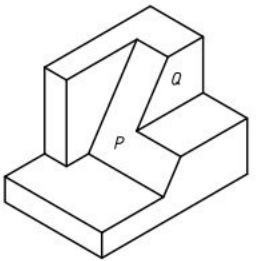

(2)

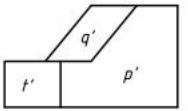

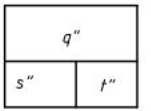

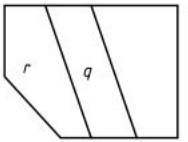

P面 _____

Q面 _____

R面 _____

S面 _____

T面 _____

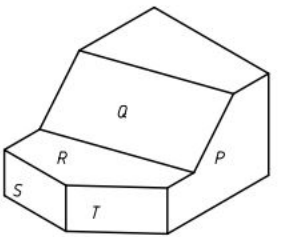

2-13　完成平面图形的第三投影，并判断属于何种位置平面

(1)

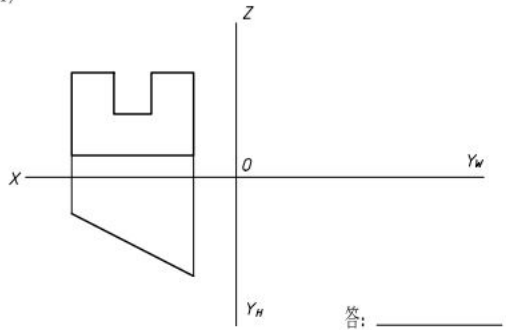

答：_____

(2)

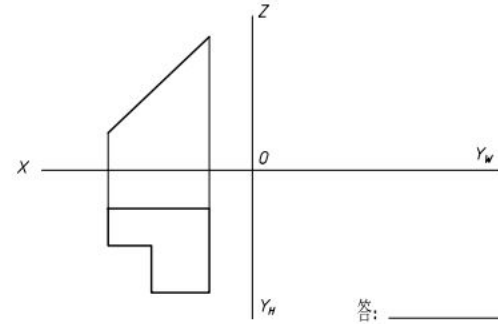

答：_____

(3)

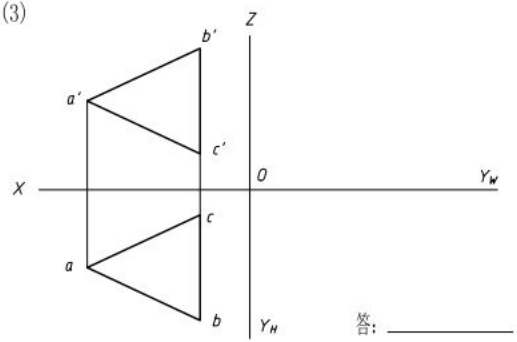

答：_____

(4)

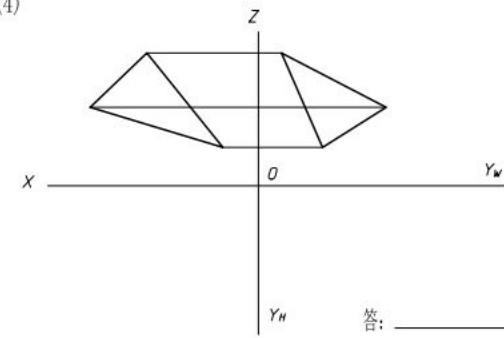

答：_____

2-14 判断点是否属于平面

(1) 点M是否属于平面△ABC ？

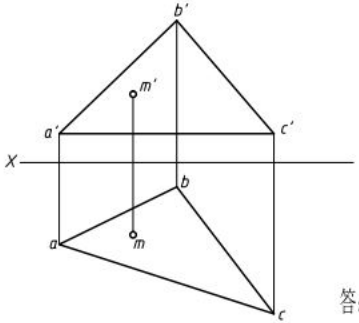

答：_____

(2) 点K是否从属于二平行线所确定的平面 ？

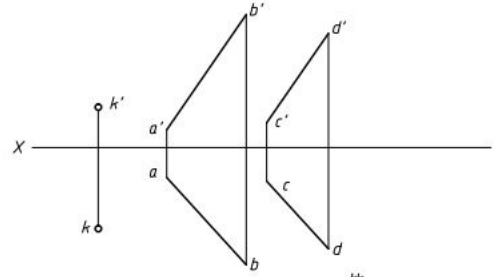

答：_____

(3) 点K从属于相交二直线决定的平面，求其水平投影。

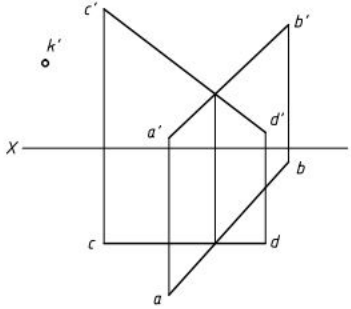

(4) 过点A作铅垂面与V面倾角为45° 。

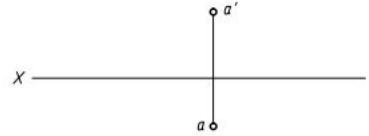

2-15　补全平面图形所缺的投影

(1)

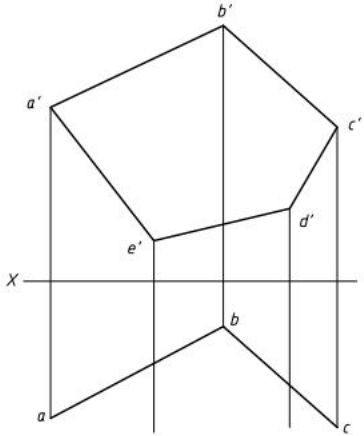

(2)

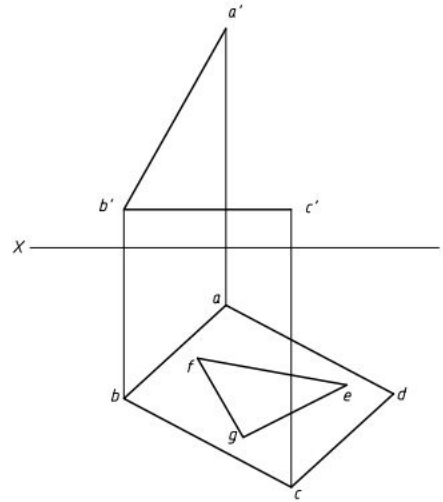

2-16 平面内作线

(1) 在平面内过点A作水平线，过点B作正平线。

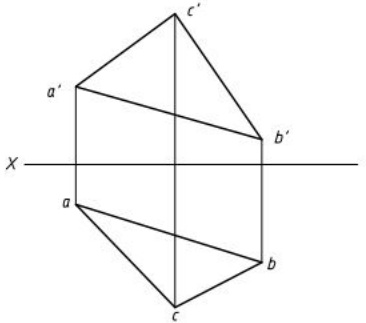

(2) 在平面内确定点K，使其距V面和H面均为15毫米。

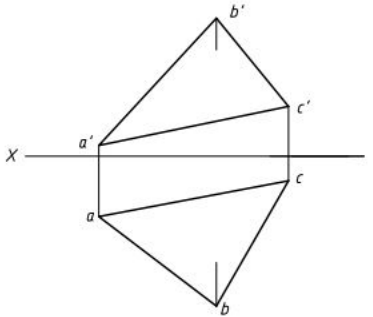
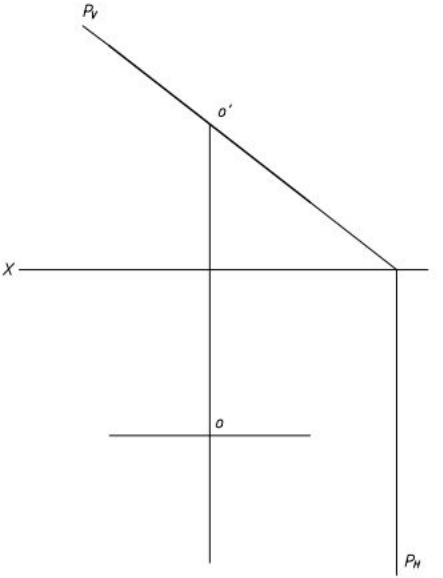
(3) 求平面P内直径为50 毫米圆（圆心为O）的水平投影。